Human Reproduction (DPP)

DPP - 1

1. The testes are situated outside the abdominal cavity within a pouch called
1) Urethra
2) Scrotum
3) Penis
4) None of these

2. The scrotum helps in maintaining a temperature lower than the internal body temperature.
1) 1 to 1.5°C
2) 2 to 2.5°C
3) 3 to 3.5°C
4) 4 to 4.5°C

3. An adult testes bears compartments called testicular lobules.
1) 150
2) 250
3) 350
4) 500

4. Assertion: The scrotum helps in maintaining the low temperature of the testes.
Reason: The low temperature of the testes is necessary for sperm development.
1) Both assertion and reason are true and reason is the correct explanation of assertion.
2) Both assertion and reason are true, but reason is not the correct explanation of assertion.
3) Assertion is true, but reason is false.
4) Both assertion and reason are false.

5. Read the following statements about the male reproductive system and choose the incorrect statements from the given options.
(I) It is located in the pelvis region.
(II) The testes are situated outside the abdominal cavity within a pouch called the scrotum,
(III) Each testis has about 350 testicular tubules.
(IV) Penis, the male external genitalia is made up of special tissues to facilitate insemination.
1) I and III
2) III and IV
3) I and IV
4) Only II

6. In humans, sperms are produced in
1) Epididymis
2) Rete testis
3) Seminiferous tubules
4) Vas deferens

7. Sertoli cells which line the seminiferous tubules from inside
1) Undergo meiotic division to produce sperm
2) Provide nutrition to the germ cells
3) Synthesise and secrete testicular hormones
4) All of these

8. The regions outside the seminiferous tubules that contain Leydig cells are called
1) Interstitial spaces

2) Antrum
3) Scrotum
4) None of these

9. Seminal plasma is rich in which sugar?
1) Sucrose
2) Glucose
3) Fructose
4) Maltose

10. The enlarged end of penis is known as
1) Glans
2) Foreskin
3) Urethra
4) Prostate

11. Which one is odd from the following structures with reference to the male reproductive system
1) Rete testis
2) Epididymis
3) Vasa efferentia
4) Isthmus

12. Which of the following structures loop over urinary bladder?
1) Epididymis
2) Vas Deferens
3) Ejaculatory duct
4) Urethra

13. Which of the following ascends to abdomen?
1) Epididymis
2) Vas Deferens
3) Vasa efferentia
4) Ejaculatory duct

14. Epididymis is located in.... of testis.
1) Anterior surface
2) Posterior surface
3) Lateral surface
4) Anterolateral surface

15. Which of the following is not a part of male external genitalia?
1) Glans Penis
2) Foreskin
3) Urethral meatus
4) Anus

DPP - 2

16. The primary female sex organ is/are
1) Vagina
2) Uterus
3) Ovaries
4) External genitalia

17. Select the incorrect statement for ovaries
1) Covered by thick epithelium to enclose stroma

2) Having stroma with outer part cortex and inner part Medulla
3) Each ovary is about 2-4 cm in length
4) Ovary secretes several steroid hormones

18. From the following identify the correct statement about the walls of the uterus?
1) It has a thick membranous external wall called the perimetrium.
2) It has a thin middle layer of smooth muscles called the myometrium.
3) It has an inner glandular layer called the endometrium.
4) All are true

19. The parts that constitute the female accessory ducts include
1) Fallopian ducts
2) Vagina
3) Ovaries
4) Both (a) and (b)

20. The funnel-shaped part of Fallopian tube that remains closer to the ovary is-
1) Infundibulum
2) Fimbriae
3) Ampulla
4) Isthmus

21. The part of the oviduct that joins the uterus is
1) Ampulla
2) Isthmus
3) Fimbriae
4) Infundibulum

22. The uterus is also called
1) Womb
2) Cervix
3) Cervical canal
4) None of these

23. The inner glandular layer that lines the uterine cavity is
1) Perimetrium
2) Myometrium
3) Endometrium
4) Ectometrium

24. The uterine layer that undergoes cyclical changes during menstrual cycle is
1) Myometrium
2) Endometrium
3) Perimetrium
4) Both (a) and (b)

25. Which uterine layer exhibits strong contractions during the delivery of the baby?
1) Endometrium
2) Perimetrium
3) Myometrium
4) Both (a) and (c)

26. A tiny finger-like structure that lies at the upper junction of the two labia minora is
1) Hymen
2) Mons pubis
3) Clitoris
4) None of these

27. Identify the correct sequence of the parts

1) Uterine body → Cervix→ Vagina
2) Uterine body → Vagina → Cervix
3) Uterine fundus → Vagina → Cervix
4) Uterine fundus → Cervix →Vagina

28. Which group represents external genitalia of human female?

1) Labium minora, labium majora, vagina
2) Labium minora, labium majora, cervix
3) Labium minora, labium majora, clitoris
4) Labium minora, labium majora, oviducts

29. Match the parts of female reproductive system given in Column-I with their functions in Column-II and choose the correct option from the codes given below.

Column I		Column II	
(A)	Ovary	(1)	Delivery of baby
(B)	Fimbriae	(2)	Steroid hormone
(C)	Myometrium	(3)	Secretion of milk
(D)	Cells of alveoli	(4)	Collection of ovum

Codes-

1) A-2, B-4, C-1, D-3
2) A-4, B-3, C-2, D-1
3) A-3, B-4, C-1, D-2
4) A-1, B-4, C-3, D-2

30. Assertion: Ovaries produce gamete as well as steroid hormones.

Reason: The oviducts, ovaries and cervix constitute the female accessory ducts.

1) Both assertion and reason are correct and reason is the correct explanation of assertion.
2) Both assertion and reason are correct but reason is not the correct explanation of assertion.
3) Assertion is correct, but reason is incorrect.
4) Both assertion and reason are incorrect.

DPP - 3

31. Identify the structure X

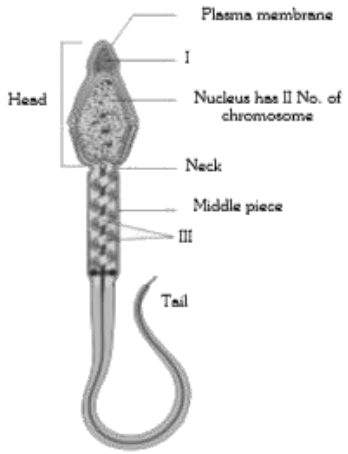

1) Acrosome
2) Mitochondria
3) Centriole
4) Nucleus

32. Leydig cells:
1) Are present in seminiferous tubules and secrete androgens
2) Are present in seminiferous tubules and help in the maturation of sperm
3) Are present in interstitial space and secrete androgens
4) Are present in interstitial space and help in the nutrition of sperm

33. Find out the correct statement with respect to human sperm.
1) The neck is filled with enzymes that help in the fertilization of the ovum.
2) Sperm shows ciliary movement
3) The tail possesses numerous mitochondria, which produce energy for the movement of sperm.
4) The head of sperm contains a haploid nucleus.

34. One primary spermatocyte produces spermatozoa in spermatogenesis.
1) 4
2) 8
3) 2
4) 1

35. The correct sequence of spermatogenetic stages leading to the formation of sperms in a mature human testis is
1) Spermatocyte→ Spermatogonia → Spermatid → Sperms
2) Spermatogonia → spermatocyte → Spermatid → Sperms
3) Spermatid → Spermatocyte → Spermatogonia → Sperms
4) Spermatogonia→ Spermatid →Spermatocyte → Sperm

36. The phases of maturation involve in spermatogenesis are
1) Formation of the Spermatids from primary spermatocytes via meiosis.
2) Growth of the spermatogonia into the primary Spermatocytes
3) Formation of the Spermatogonia from Gonocytes via mitosis
4) Formation of the Oogonia from Spermatocytes via meiosis.

37. Androgens stimulate.
1) Spermiation
2) Insemination
3) Spermatogenesis
4) Oogenesis

38. Which of these happens during Spermatogenesis?
1) Mitosis
2) Meiosis
3) Mitosis and Meiosis
4) None of the above

39. The difference between primary and secondary spermatocytes lies in
1) Presence/absence of a tail
2) Number of chromosomes
3) Being hormone-producing/nonhormone producing
4) Primary gamete/secondary gamete in males

40. Oogenesis starts at
1) Embryonic Development stage
2) At the time, when five million oogonia are formed in female foetus
3) At the time of birth
4) All of the above

41. Primary follicles are formed

1) During foetal Growth
2) At the time of birth
3) At Puberty
4) At Menarche

42. At puberty, how many primary follicles are there in each ovary in a female?
1) 60000-80000
2) 120000-160000
3) 30000-40000
4) 12000

43. The first meiotic division of primary oocyte is finished in
1) Graafian Follicle
2) Tertiary follicle
3) Primary Follicle
4) Randomly

44. The result of meiosis I in females for oogenesis will be
1) Secondary Oocyte
2) Ovum
3) Primary oocyte
4) Second polar body

45. Secondary oocyte is formed
1) At puberty
2) At the time of birth
3) At fertilization
4) During embryonic growth

DPP - 4

46. The correct sequence of the various phases of a typical menstrual cycle is:
1) Menstrual → Follicular → secretory →Ovulatory
2) Menstrual → Follicular → Ovulatory → secretory
3) Ovulatory → Follicular → secretory → Menstrual
4) Menstrual → Secretory → Follicular → Ovulatory

47. The menstrual phase of menstrual cycle lasts for:
1) 8-15 days
2) 1-2 days
3) 1 day
4) 3-5 days

48. Menstrual cycles ceases around 50 years of age; that is termed as
1) Menopause
2) Menarche
3) Implantation
4) Ovulation

49. In the given diagram, identify A, B, C and D. respectively:

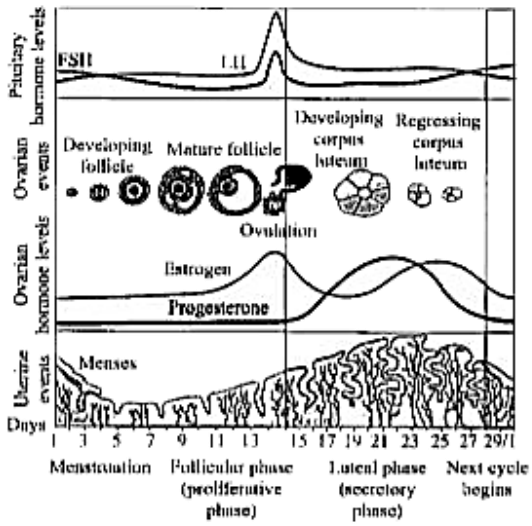

1) LH, FSH, Progesterone and Estrogen
2) FSH, LH, Estrogen and Progesterone
3) Estrogen, Progesterone, LH and FSH
4) Progesterone, Estrogen, FSH and LH

50. What layer of the uterus is shredded during menstruation?
1) Perimetrium
2) Myometrium
3) Epimetrium
4) Endometrium

51. Cyclic menstruation is an indicator of normal reproductive phase and extends between
1) Menarche and Ovulation
2) Ovulation and menopause.
3) Menarche and Menopause.
4) Ovulation and Leutal phase

52. During pregnancy
1) The menstrual cycle stop
2) The menstrual cycle carry on
3) Corpus luteum don't secretes progesterone
4) Both A and C

53. The menstrual phase is followed by
1) Follicular phase
2) Pregnancy
3) Luteal phase
4) Secretory phase

54. During copulation (coitus) semen is released by the penis into the vagina, the process is known as
1) Parturition
2) Gametogenesis
3) Insemination
4) Implantation

55. Implantation is the process of
1) Attachment of blastocyst to the uterine wall
2) Egg movement
3) Degeneration of egg

4) Egg fertilization

56. The sex of the baby is determined by the chromosomes of:
1) Mother
2) Father
3) Doctor
4) None of these

57. Implantation occurs
1) After the formation of the placenta
2) After gametogenesis
3) After blastulation
4) Before fertilization

58. Assertion: All copulations do not lead to fertilization and pregnancy.
Reason: Fertilisation can only occur if the ovum and sperms are transported simultaneously to the ampullaryisthmic junction.
1) Both assertion and reason are true and reason is the correct explanation of assertion.
2) Both assertion and reason are true but reason is not the correct explanation of assertion.
3) Assertion is true but reason is false.
4) Both assertion and reason are false.

59. All the haploid gametes produced by the female have
1) X-chromosomes
2) Y-chromosomes
3) 50% gametes have X and 50% have Y- chromosomes
4) 25% gametes have X and 75% have Y- chromosomes

60. By the end of the _____ of pregnancy, the foetus develops limbs and digits
1) Fifth month
2) Second month
3) Seventh month
4) Ninth month

DPP - 5

61. After implantation, finger-like projections appear on the called chorionic villi
1) Endometrium
2) Uterine glands
3) Inner cell mass
4) Trophoblast

62. Identify the incorrect statement with respect to the placenta
1) Formed by interdigitation of the chorionic villi and uterine tissue
2) It is the structural and functional connection between developing embryo and maternal body
3) Placenta acts as an exocrine tissue
4) Placenta secretes estrogen and progesterone during pregnancy

63. Hormone secreted only during the pregnancy is
1) Progesterone
2) Estrogen
3) hCG
4) Adrenalin

64. Which one is correct with respect to path of removal of waste?
1) Mother-placenta- growing Foetus

2) Baby- umbilical cord-mother
3) Growing Foetus- umbilical cordplacenta-mother
4) Growing Foetus- Placenta- Mother

65. During pregnancy the levels of which of these hormones are increased several folds in the maternal blood?
1) Estrogens
2) Cortisol
3) Thyroxine
4) All of these

66. The structural and functional unit formed between the developing embryo (foetus) and maternal body is called
1) Placenta
2) Trophoblast
3) Chorionic villi
4) Trophoctoderm

67. By the end of _____ weeks major organ systems are formed in fetus
1) 24
2) 12
3) 18
4) 6

68. The first sign of a growing foetus may be noticed by
1) Listening to the heart sound
2) The development of limbs and digits
3) The appearance of hair on the head
4) The formation of eyelashes

69. Identify the structure X correctly

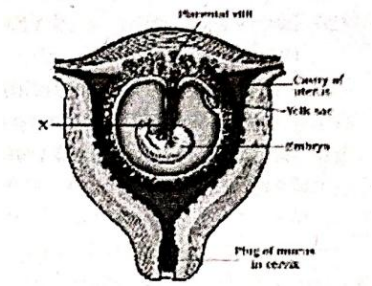

1) Amnion
2) Chorion
3) Umbilical cord
4) Fetal lung

70. Chorionic villi are surrounded by
1) Uterine tissue
2) Uterine tissue and maternal blood
3) Maternal blood cells
4) Morula

71. Which of the following hormone is secreted by the ovary in the later phase of pregnancy?
1) FSH
2) Prolactin
3) LH
4) Relaxin

72. Immediately after implantation, the inner cell mass (embryo) differentiates into

1) Outer ectoderm and inner endoderm
2) Outer endoderm and inner ectoderm
3) Outer ectoderm inner epiderm
4) Outer mesoderm inner ectoderm

73. Which organ is the first to form in the developing human fetus, formed after just 1 month of pregnancy?
1) Heart
2) Brain
3) Kidney
4) Liver

74. Assertion: The first movements of foetus are observed during the third month of pregnancy
Reason: By the end of first trimester, eyelids separate and eye-lashes are formed
1) Both assertion and reason are true and reason is the correct explanation of assertion
2) Both assertion and reason are true, but reason is not the correct explanation of assertion
3) Assertion is true, but reason is false
4) Both assertion and reason are false

75. How many statements given below are correct?
(i) Relaxin is secreted by the ovary in the later phase of pregnancy
(ii) Inner cell mass differentiates into ectoderm and endoderm just before implantation
(iii) Implantation leads to pregnancy.
(iv) Embryo with 8 to 16 blastomeres is called a morula
1) 2
2) 1
3) 0
4) 3

DPP - 6

76. Which of the following hormone causes stronger uterine contractions during parturition?
1) LH
2) Oxytocin
3) Prolactin
4) hCG

77. Signals for parturition originate from
1) Fully developed fetus only
2) Both placenta as well as fully developed fetus
3) Oxytocin released from the maternal pituitary
4) Placenta only

78. The duration of pregnancy is called
1) Parturition
2) Lactation
3) Gestation period
4) None of these

79. Colostrum has
1) Only one antibody
2) Several antibodies
3) Two antibodies
4) Four antibodies

80. The process of delivery of the foetus is called
1) Lactation
2) Parturition
3) Foetal protection reflex
4) None of these

81. The milk produced during the initial few days of lactation is called
1) Colostrum
2) First milk
3) Milky water
4) None of these

82. The process of milk production is called
1) Lactation
2) Parturition
3) After gametogenesis
4) Colostrum

83. Assertion: Doctors use to inject oxytocin to induce delivery.
Reason: Oxytocin causes uterine contraction which helps in delivery.
1) If both the assertion and the reason are true and the reason is a correct explanation of the assertion.
2) If both the assertion and reason are true but the reason is not a correct explanation of the assertion.
3) If the assertion is true but the reason is false.
4) If both the assertion and reason are false

84. Assertion: Parturition is a complex neuroendocrine mechanism.
Reason: The signals of parturition originate from the fully developed fetus and placenta.
1) Both assertion and reason are true and reason is the correct explanation of assertion.
2) Both assertion and reason are true, but reason is not the correct explanation of assertion.
3) Assertion is true, but reason is false.
4) Both assertion and reason are false.

85. Which of the following statement is incorrect?
1) Soon after the infant is delivered, the placenta is also expelled out of the uterus.
2) Lactation period helps the mother in feeding the new-born
3) The average duration of human pregnancy is about 9 months which is called the gestation period.
4) Colostrum do not contains antibodies.

86. Which of the following hormone is not associated with the human placenta?
1) LH
2) Chorionic gonadotrophin
3) Relaxin
4) Placental lactogen

87. Which of these is not an important component of the initiation of parturition in humans?
1) Release of oxytocin
2) Release of prolactin
3) Increase in estrogen and progesterone ratio
4) Both a and c

88. The appearance of hair on foetus head are usually observed during which month of pregnancy?
1) Fourth month
2) Fifth month

3) Sixth month
4) Third month

89. The foetus develops limbs and digits by the end of
1) 1st month of pregnancy
2) 2nd month of pregnancy
3) 3rd month of pregnancy
4) 5th month of pregnancy

90. Which of the following hormones are secreted in women only during pregnancy?
A. Relaxin B. Vasopressin C. hCG D. Progesterone E. Insulin
Choose the most appropriate answer from the option given below:
1) (c), (d) and (e) only
2) (b) and (e) only
3) (b), (c) and (d) only
4) (a), (c) and (d) only

Answer Key

1)	2	**16)**	3	**31)**	1	**46)**	2	**61)**	4	**76)**	2
2)	2	**17)**	1	**32)**	3	**47)**	4	**62)**	3	**77)**	2
3)	2	**18)**	3	**33)**	4	**48)**	1	**63)**	3	**78)**	3
4)	1	**19)**	4	**34)**	1	**49)**	2	**64)**	3	**79)**	2
5)	4	**20)**	1	**35)**	2	**50)**	4	**65)**	4	**80)**	2
6)	3	**21)**	2	**36)**	1	**51)**	3	**66)**	1	**81)**	1
7)	2	**22)**	1	**37)**	3	**52)**	1	**67)**	2	**82)**	1
8)	1	**23)**	3	**38)**	3	**53)**	1	**68)**	1	**83)**	1
9)	3	**24)**	2	**39)**	2	**54)**	3	**69)**	3	**84)**	2
10)	1	**25)**	3	**40)**	1	**55)**	1	**70)**	2	**85)**	4
11)	4	**26)**	3	**41)**	1	**56)**	2	**71)**	4	**86)**	1
12)	2	**27)**	1	**42)**	1	**57)**	3	**72)**	1	**87)**	2
13)	2	**28)**	3	**43)**	2	**58)**	1	**73)**	1	**88)**	2
14)	2	**29)**	1	**44)**	1	**59)**	1	**74)**	4	**89)**	2
15)	4	**30)**	3	**45)**	1	**60)**	2	**75)**	4	**90)**	4