Alcohol, Phenol & Ether

1. 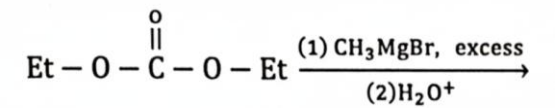

1) 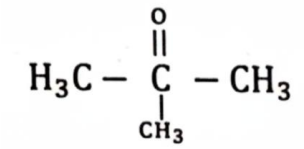

2) 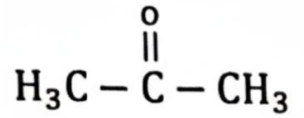

3) 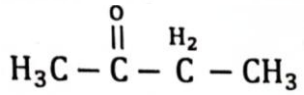

4) 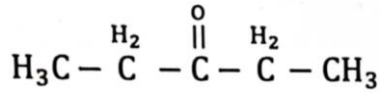

2. In which of the following reaction 2° alcohol is obtained as a product?

1) 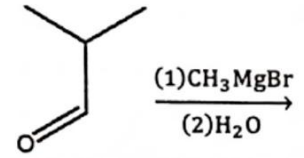

2) 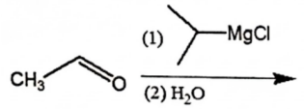

3) 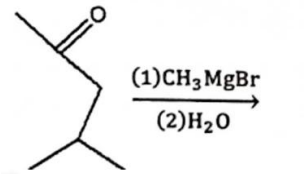

4) Both (1) and (2)

3. What product would you expect to obtain from Grignard reaction when an excess of phenylmagnesium bromide reacts with dimethyl carbonate $CH_3OCOOCH_3$?

1) 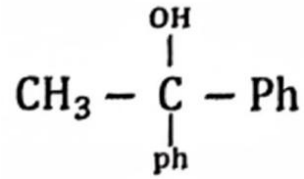

2) 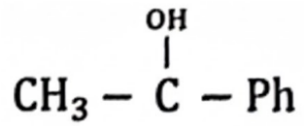

3) 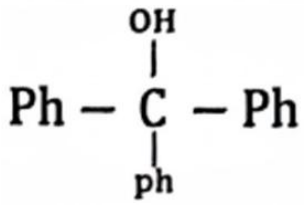

4) 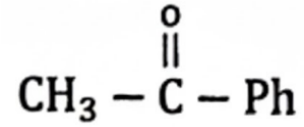

4. End product of the given reaction is:

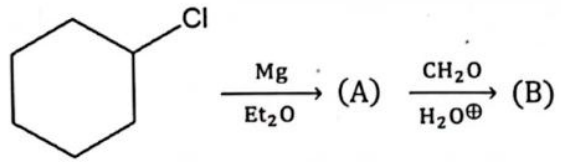

1) 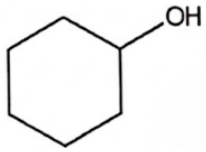

2) 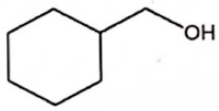

3) 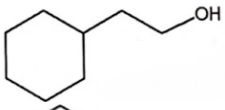

4)

5. 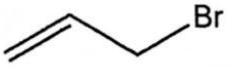

Predict major product of the reaction:

1)

2)

3) 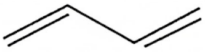

4) 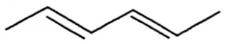

6. What is the major product of the following reaction?

$$CH_3 - C \equiv N \xrightarrow[Et_2O]{CH_3MgI} \xrightarrow{H_3O^{\oplus}}$$

1) $CH_3 - CH_2 - NH - CH_3$

2) $CH_3 - \overset{\overset{NH}{\|}}{C} - CH_3$

3) $CH_3 - \overset{\overset{O}{\|}}{C} - CH_3$

4) $CH_3 - CH_2 - \overset{\overset{O}{\|}}{C} - OH$

7. 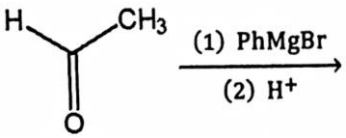

Products; Product obtained in this reaction are:

1) Diastereomers
2) Racemic
3) pure enantiomer
4) meso

8. What is the product of the following reaction?

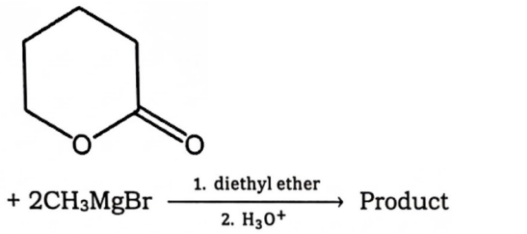

1) $HO-\underset{\underset{CH_3}{|}}{CH}CH_2\,CH_2CH_2\underset{\underset{CH_3}{|}}{CH}-OH$

2) $CH_3OCH_2CH_2CH_2CH_2\underset{\underset{CH_3}{|}}{CH}-OH$

3) $HOCH_2CH_2CH_2CH_2\,\overset{\overset{CH_3}{|}}{\underset{\underset{CH_3}{|}}{C}}\,-OH$

4) $HOCH_2CH_2CH_2\underset{\underset{CH_3}{|}}{CH}OCH_3$

9. Give the expected product of the

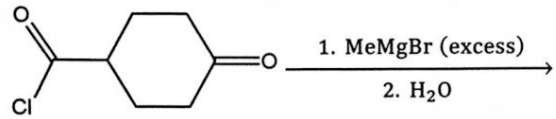

1) 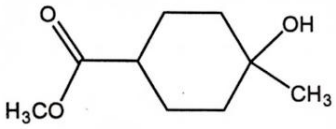

2) 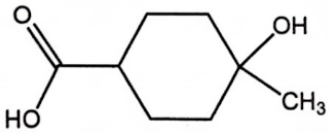

3) 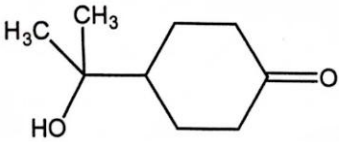

4) 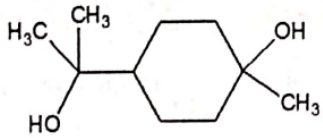

10. Identify the correct set of reagents to carry out the following reaction-

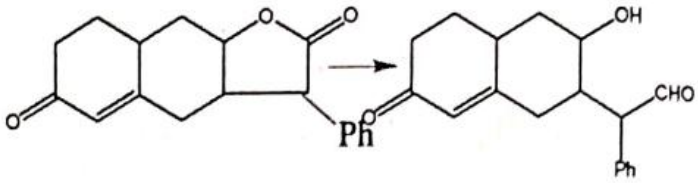

1) DIBAL – H followed by H_3O^+
2) $NaOH / H_2O$
3) $LiAlH_4$
4) $NaBH_4$

11. Product of the following reactions is

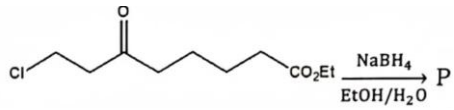

1) 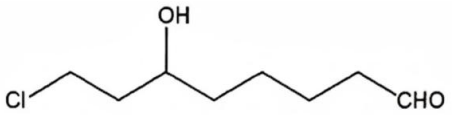

2) 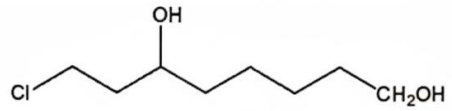

3) 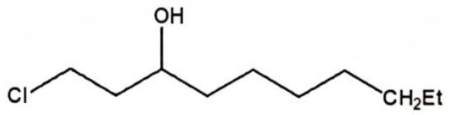

4) All of the above

12. Number of functional groups reduce by NaBH4 in the following compound

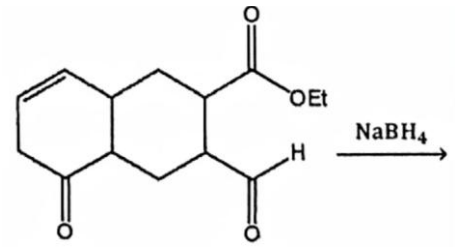

1) 2
2) 3
3) 4
4) 5

13. Find out the product when compound reacts with $NaBH_4$

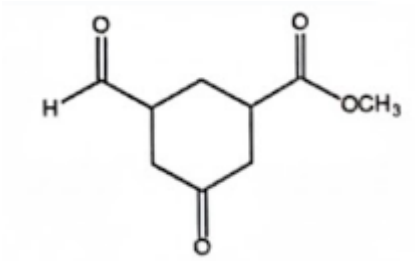

1) 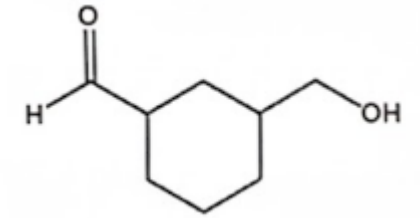

2) 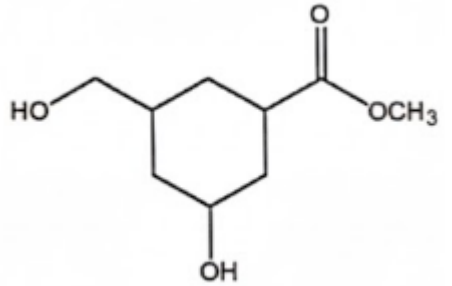

3) 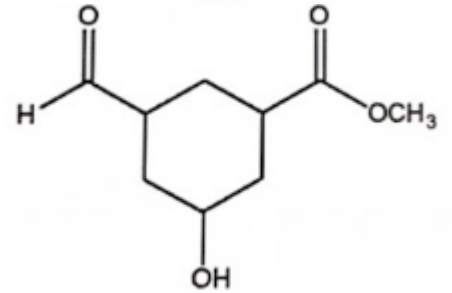

4) 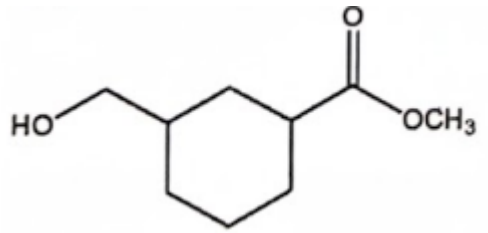

14. What is the major product formed in the following transformation

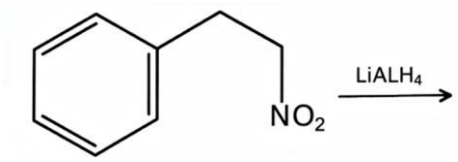

1) 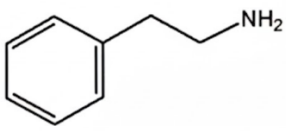

2) 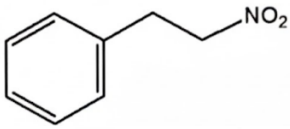

3) 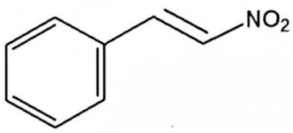

4) 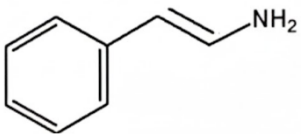

15. Identify the major product for the given reaction

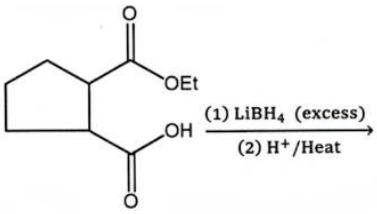

1) 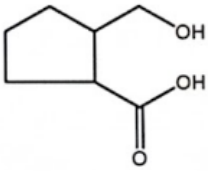

2) 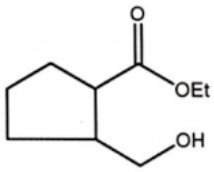

3) 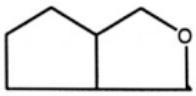

4) 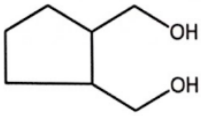

16. Find the major product in following reaction.

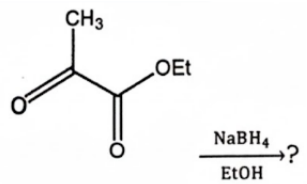

1) 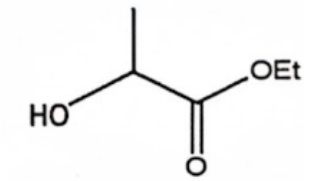

2) 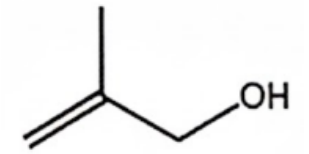

3) 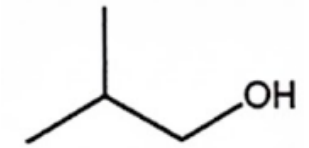

4) 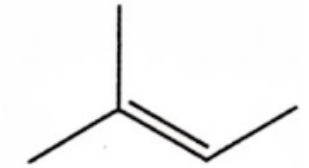

17. Predict the product of the following reaction.

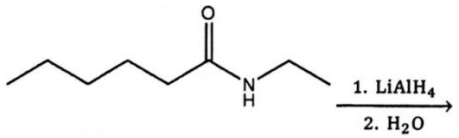

1) 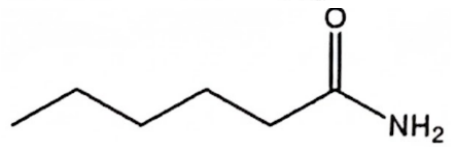

2) 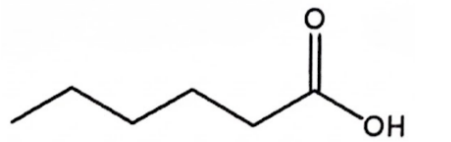

3) 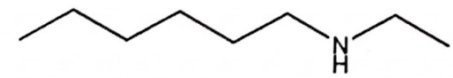

4) 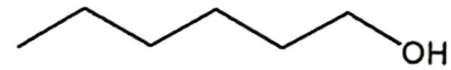

18. Choose order that has the following compounds correctly arranged with respect to increasing rate of reaction with $LiAlH_4$. (Most reactive compound on the right).

1) 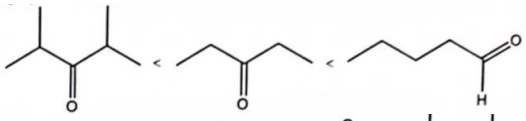

2) 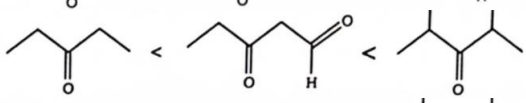

3) 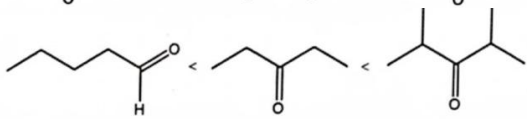

4) 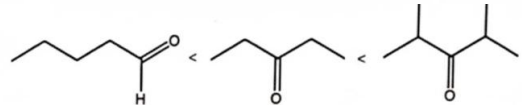

19. 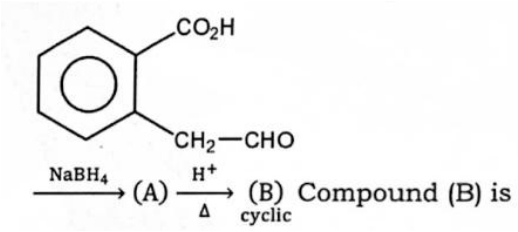

Compound (B) is

1) 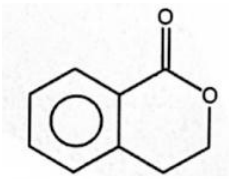

2) 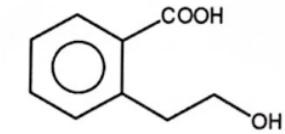

3) 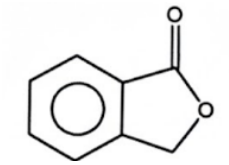

4) Both (1) and (3)

20. Which of the following compounds will give butanone on oxidation with alkaline $KMnO_4$ solution?

1) Butan-1-ol
2) Butan-2-01
3) 1-Pentanol
4) Cyclobutanol

21. Which of the following reaction cannot occur with $KMnO_4$ to gives acid.

1) 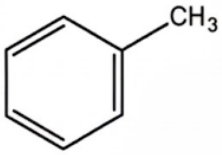

2) 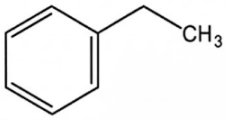

3) 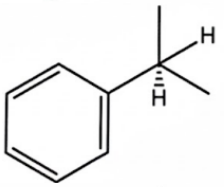

4) 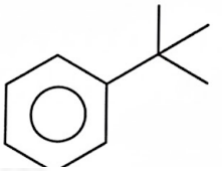

22. 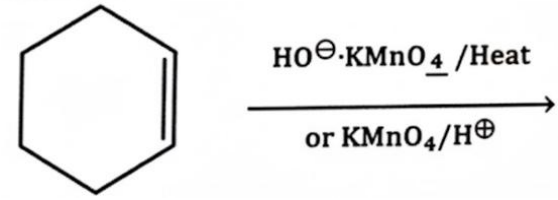

1) 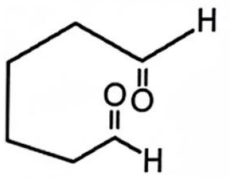

2) 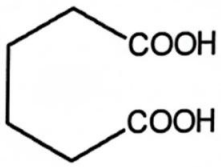

3) 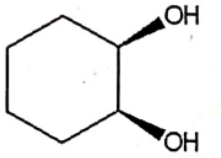

4) 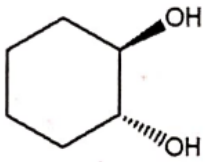

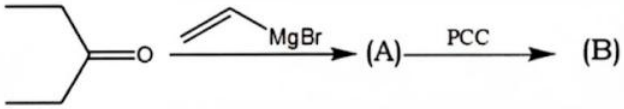

23. Find B?

1) 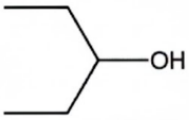

2) 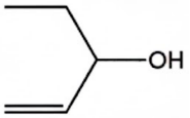

3) 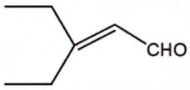

4) 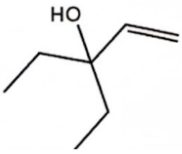

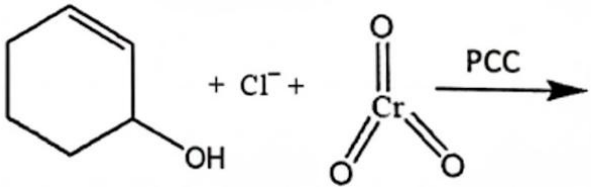

24.

1) 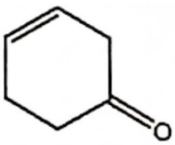

2) 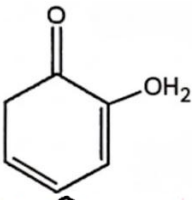

3) 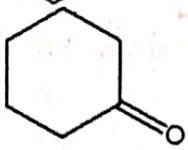

4) 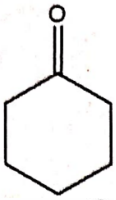

25. 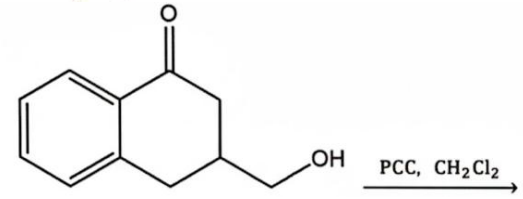

1) 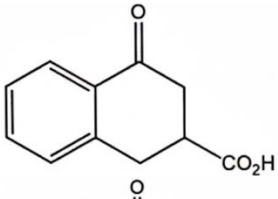

2) 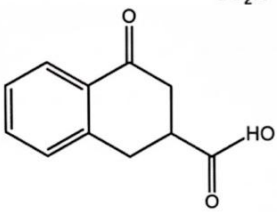

3) 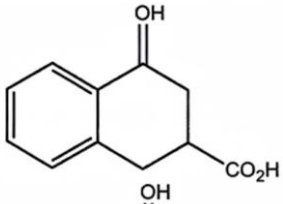

4) 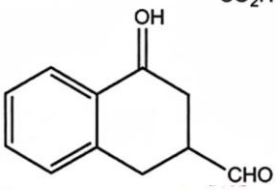

26. 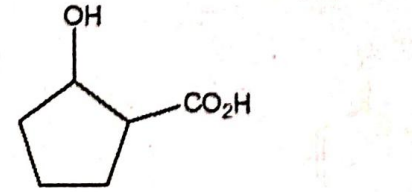

$\xrightarrow[\Delta]{K_2Cr_2O_7}$ **(P); Product (P) is:**

1)

2) 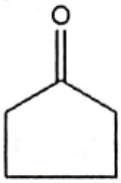

3) 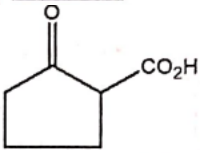

4) 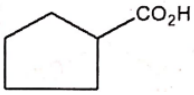

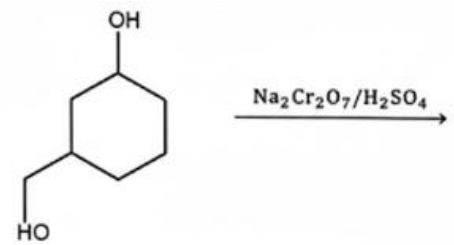

27. The product obtained is:

1) 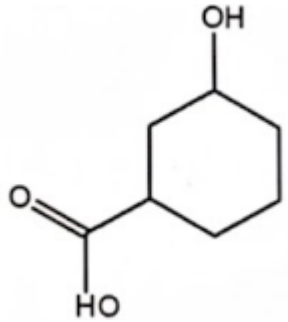

2) 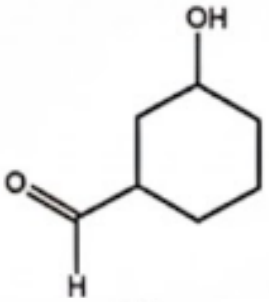

3) 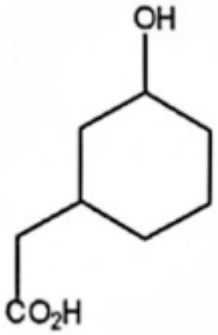

4) None of these

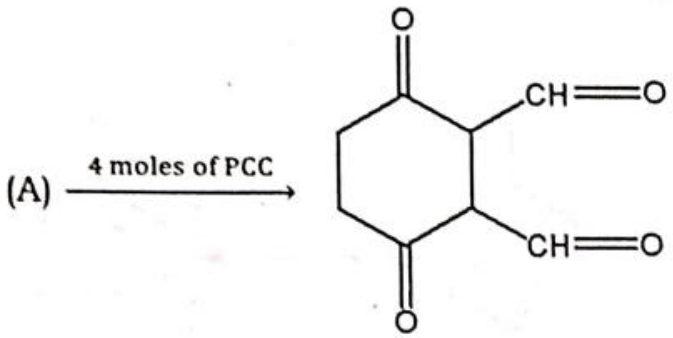

28.

Maximum number of moles of Ac_2O consumed by reactant (A) is:

1) 2
2) 3
3) 4
4) 5

29. 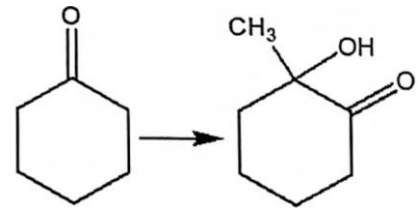

1) CH_3MgBr / H^+
2) $KMnO_4$ (cold dill.)
3) CrO_3
4) H^+ / Δ

For the above conversion the correct order of reagents used is:

1) $1 \rightarrow 2 \rightarrow 3 \rightarrow 4$
2) $1 \rightarrow 4 \rightarrow 3 \rightarrow 2$
3) $1 \rightarrow 4 \rightarrow 2 \rightarrow 3$
4) $2 \rightarrow 3 \rightarrow 4 \rightarrow 1$

30. What is the major product of the following reaction?

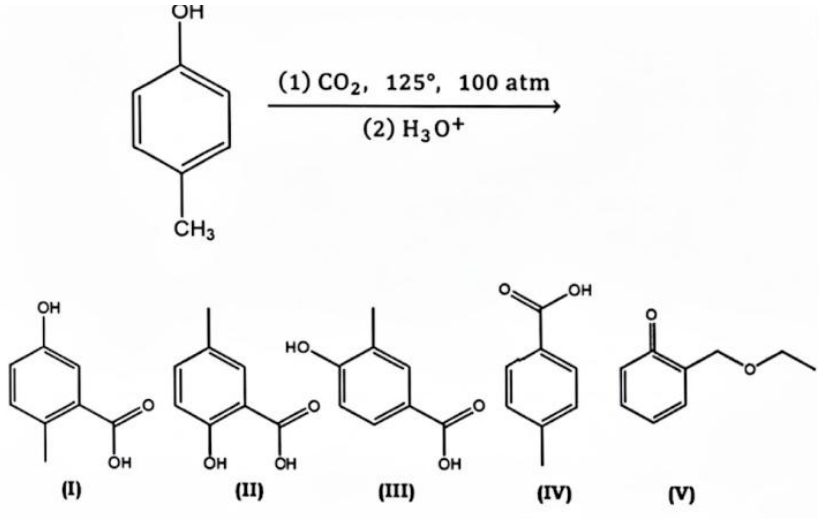

1) I
2) II
3) III
4) IV

Answer Key

1	1	**16**	1
2	4	**17**	3
3	3	**18**	2
4	2	**19**	1
5	2	**20**	2
6	3	**21**	4
7	2	**22**	2
8	3	**23**	4
9	4	**24**	2
10	1	**25**	2
11	3	**26**	3

12	1	**27**	1
13	2	**28**	3
14	1	**29**	3
15	3	**30**	2