Question	The structure shown 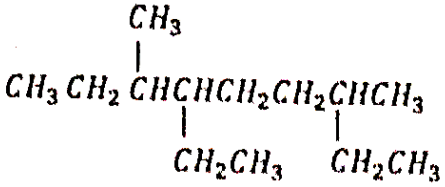
Type	multiple choice
Option	1°, 2°, and 3° carbon atoms
Option	1° and 2° carbon atoms only
Option	1° and 3° atoms only
Option	2° and 3° carbon atoms only
Answer	1
Solution	
Positive Marks	4
Negative Marks	1
Question	How many 1° carbon atom will be present in a simplest hydrocarbon having two 3° and one 2° carbon atom?
Type	multiple choice
Option	3
Option	4
Option	5
Option	6
Answer	2
Solution	
Positive Marks	4
Negative Marks	1
Question	1°, 2°, 3° and 4° carbon atoms are present in:
Type	multiple choice
Option	2, 2, 3-trimethyl pentane
Option	2, 3, 4-trimethyl pentane
Option	Both
Option	none
Answer	1
Solution	
Positive Marks	4
Negative Marks	1
Question	Cyclohexa-1, 4-diene contains _____ vinylic and _____ allylic hydrogen atoms? 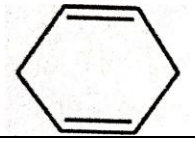
Type	multiple choice
Option	2 and 2 respectively
Option	4 and 4 respectively
Option	2 and 4 respectively
Option	4 and 2 respectively
Answer	2
Solution	
Positive Marks	4
Negative Marks	1
Question	CH_2I_2 is a _____ halide.
Type	multiple choice
Option	Vicinal

Option	Secondary
Option	Geminal
Option	Vinyl
Answer	3
Solution	
Positive Marks	4
Negative Marks	1
Question	Which of the following compound is heterocyclic compound
Type	multiple choice
Option	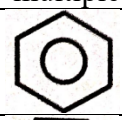
Option	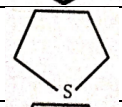
Option	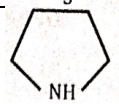
Option	Both 2 and 3
Answer	4
Solution	
Positive Marks	4
Negative Marks	1
Question	Bond X is made by the overlap of which type of hybridized orbitals? 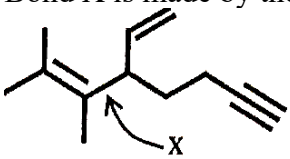
Type	multiple choice
Option	sp and sp^3
Option	sp and sp^2
Option	sp^2 and sp^3
Option	None of these
Answer	3
Solution	
Positive Marks	4
Negative Marks	1
Question	Select the response that correctly identifies the number of carbon atoms of each type of hybridization in the compound given below: $H_2C = C = CH - CH = 0$
Type	multiple choice
Option	sp^3 sp^2 sp 2 2 0
Option	1 3 0
Option	0 3 1
Option	1 2 1
Answer	3
Solution	
Positive Marks	4
Negative Marks	1
Question	How many σ and π bonds are present in tetracyanoethene?

	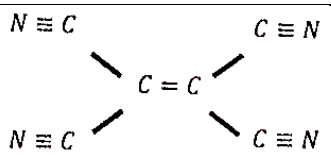
Type	multiple choice
Option	9σ,9π
Option	5σ,9π
Option	9σ,5π
Option	8σ,8π
Answer	1
Solution	
Positive Marks	4
Negative Marks	1
Question	Which is saturated compound?
Type	multiple choice
Option	
Option	$CH_3 - C \equiv C - CH_3$
Option	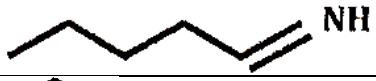
Option	
Answer	1
Solution	
Positive Marks	4
Negative Marks	1
Question	Which of the following is correct IUPAC name?
Type	multiple choice
Option	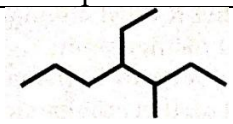 3-methyl-4-ethylheptane 3-methyl-4-ethylheptane
Option	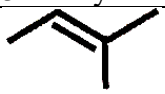 3-methylbut-2-ene
Option	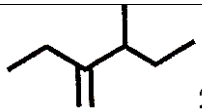 2-ethyl-3-methylpent-1-ene
Option	All of these
Answer	3
Solution	
Positive Marks	4
Negative Marks	1
Question	IUPAC name for the given compound is $CH_3 - CH = CH - CH - CH_3$ | $C \equiv CH$
Type	multiple choice

Option	4-ethylpent-2-ene
Option	1-ethylpent-3-methylbut-2-ene
Option	3-methylhex-4-en-1-yne
Option	4-methylhex-2-en-5-yne
Answer	3
Solution	
Positive Marks	4
Negative Marks	1
Question	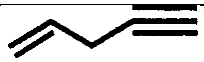 Correct IUPAC name of given compound is:
Type	multiple choice
Option	pent-1-en-3-yne
Option	pent-2-en-4-yne
Option	pent-4-yn-1-ene
Option	pent-1-en-4-yne
Answer	4
Solution	
Positive Marks	4
Negative Marks	1
Question	What is the parent name for the following alkane? (Note: The parent name corresponds to the longest continuous chain of carbon atoms.) 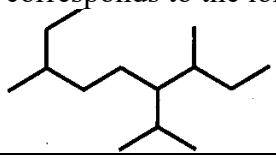
Type	multiple choice
Option	Heptane
Option	Octane
Option	Nonane
Option	Decane
Answer	3
Solution	
Positive Marks	4
Negative Marks	1
Question	Identify the correct IUPAC name
Type	multiple choice
Option	2, 2-dimethyl-4-ethyl heptane
Option	5-Ethyl-2-methyl hexane
Option	1, 3-dimethyl butane
Option	3-Ethyl-1, 1-dimethyl cyclohexane
Answer	4
Solution	
Positive Marks	4
Negative Marks	1
Question	The IUPAC name of 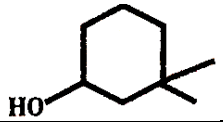
Type	multiple choice
Option	3,3-dimethyl-1-hydroxycyclohexane
Option	1,1-dimethyl-3-hydroxycyclohexane
Option	3,3-dimethylcyclohexan-1-ol
Option	1,1-dimethylcyclohexan-3-ol
Answer	3

Solution	
Positive Marks	4
Negative Marks	1
Question	Select the correct IUPAC name of the compound. $H_3C - CH = CH_2CH_3$ 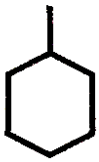
Type	multiple choice
Option	1-methyl-1-cyclohexyl prop-1-ene
Option	2-cyclohexyl but-2-ene
Option	3-cyclohexyl but-2-ene
Option	3-methyl 3-cyclohexyl prop-2-ene
Answer	2
Solution	
Positive Marks	4
Negative Marks	1
Question	The IUPAC name of 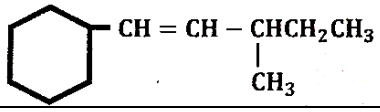 $CH = CH - CHCH_2CH_3$ $\quad\quad\quad

Option	Methyl diethyl ethanamine
Answer	3
Solution	
Positive Marks	4
Negative Marks	1
Question	Which of the following is/are 3-Methyl cyclohex-3-enol
Type	multiple choice
Option	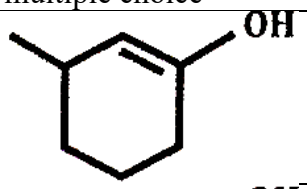
Option	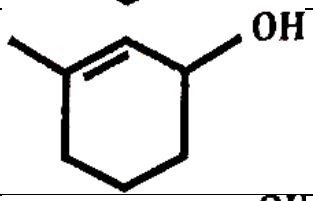
Option	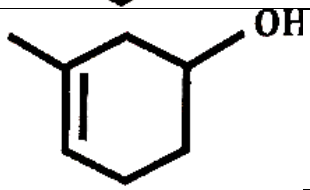
Option	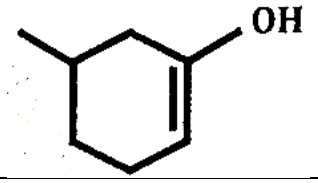
Answer	3
Solution	
Positive Marks	4
Negative Marks	1
Question	What is the IUPAC name of the molecule shown? 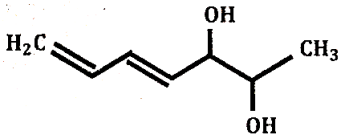
Type	multiple choice
Option	1, 3-heptadiene-5, 6-diol
Option	4, 5-heptadiene-2, 3-diol
Option	4-heptene-2, 3-diol
Option	4, 6-heptadien-2, 3-diol
Answer	4
Solution	
Positive Marks	4
Negative Marks	1
Question	The IUPAC name of 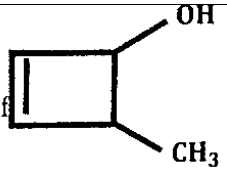
Type	multiple choice
Option	3-Methyl cyclobutene-2-ol
Option	4-Methyl cyclobut-2-en-1-ol
Option	4-Methyl cyclobuten-3-ol
Option	2-Methyl cyclobut-3-en-1-ol

Answer	2
Solution	
Positive Marks	4
Negative Marks	1
Question	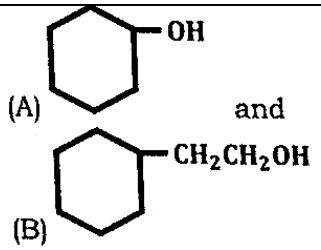 True statement for the above compounds is:
Type	multiple choice
Option	(A) is phenol while (B) is alcohol
Option	Both (A) and (B) are primary alcohol
Option	(A) is primary and (B) is secondary alcohol
Option	(A) is secondary and (B) is primary alcohol
Answer	4
Solution	
Positive Marks	4
Negative Marks	1
Question	The IUPAC name of the compound 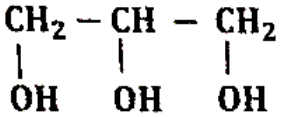 is:
Type	multiple choice
Option	1,2,3-Tri hydroxy propane
Option	3-Hydroxy pentane- 1,5-diol
Option	1,2,3-Hyrdoxy propane
Option	Propane-1,2,3-triol
Answer	4
Solution	
Positive Marks	4
Negative Marks	1
Question	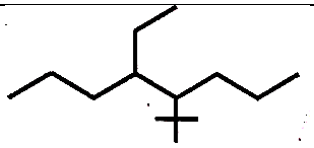 Correct IUPAC name of the following compound is-
Type	multiple choice
Option	4-(1, 1-dimethylethyl)-5-ethyloctane
Option	5-ethyl-4-(1, 1-dimethylethyl)octane
Option	5-(1,1-dimethylethyl)-4-ethyloctane
Option	5-ethyl-5-(1, 1-dimethylethyl)octane
Answer	3
Solution	
Positive Marks	4
Negative Marks	1
Question	Correct IUPAC name for 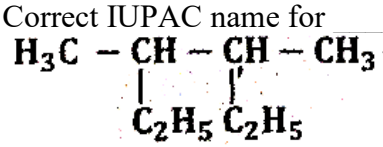
Type	multiple choice
Option	2-ethyl-3-methylpentane

Option	3, 4-dimethylhexane
Option	2-sec-butylbutane
Option	2, 3-dimethylbutane
Answer	2
Solution	
Positive Marks	4
Negative Marks	1
Question	Select the structure of 4-ethyl-2, 3- dimethyl-2-heptene
Type	multiple choice
Option	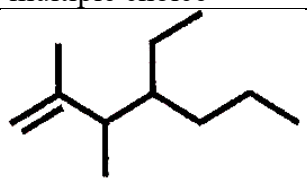
Option	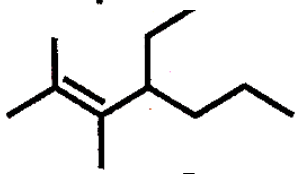
Option	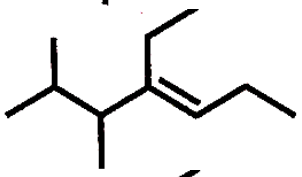
Option	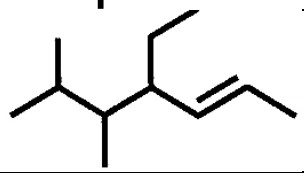
Answer	2
Solution	
Positive Marks	4
Negative Marks	1
Question	The IUPAC name of the compound having the formula is: $H_3C-\underset{\underset{CH_3}{\vert}}{\overset{\overset{CH_3}{\vert}}{C}}-CH=CH_2$
Type	multiple choice
Option	3,3,3-Trimethylprop-1-ene
Option	1,1,1-Trimethylprop-2-ene
Option	3,3-Dimethylbut-1-ene
Option	2,2-Dimethýlbut-3-ene
Answer	3
Solution	
Positive Marks	4
Negative Marks	1
Question	What is the sum of positions assigned to bromine while numbering the Parent Chain in the below compounds? 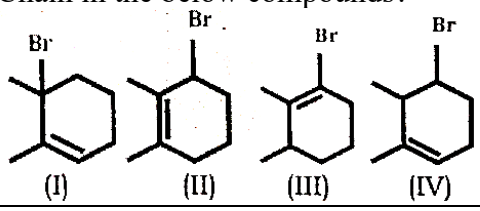
Type	multiple choice
Option	13

Option	14
Option	15
Option	16
Answer	3
Solution	
Positive Marks	4
Negative Marks	1
Question	Which functional group(s) are not present in given compound? 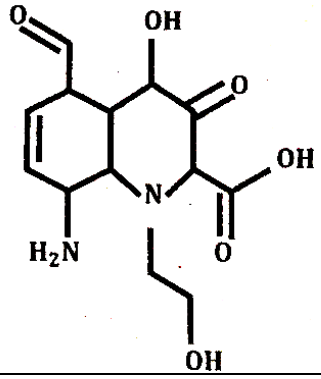
Type	multiple choice
Option	Alcohol
Option	Ketone
Option	Carboxylic acid
Option	Amide
Answer	4
Solution	
Positive Marks	4
Negative Marks	1
Question	The correct structure for ethyl 3- methylbutanoate is:
Type	multiple choice
Option	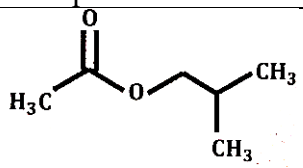
Option	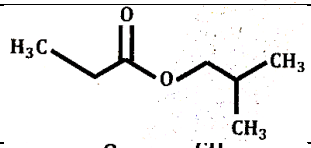
Option	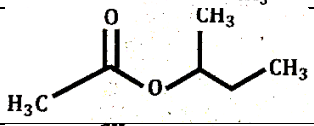
Option	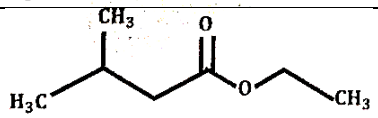
Answer	4
Solution	
Positive Marks	4
Negative Marks	1
Question	Provide the proper IUPAC name for the compound below 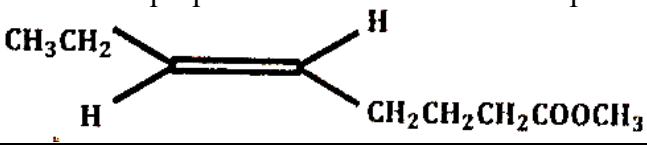
Type	multiple choice
Option	Methyl Oct-4-ene-1-carboxylate

Option	Methyl Oct-3-enoate
Option	Methyl Oct-5-enoate
Option	Methyl Oct-3-en-8-oate
Answer	3
Solution	
Positive Marks	4
Negative Marks	1
Question	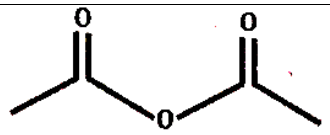 IUPAC name is:
Type	multiple choice
Option	2, 4-Butanedione
Option	Ethoxy ethenone
Option	Ethanoic anhydride
Option	Acetic anhydride
Answer	3
Solution	
Positive Marks	4
Negative Marks	1
Question	Which of the following compounds is an anhydride? I. 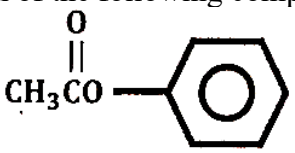 II. 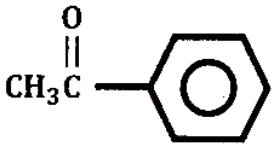 III. $CH_3\overset{O}{\overset{\|}{C}}OH$ IV. $CH_3\overset{O}{\overset{\|}{C}}O\overset{O}{\overset{\|}{C}}CH_3$
Type	multiple choice
Option	I
Option	II
Option	III
Option	IV
Answer	4
Solution	
Positive Marks	4
Negative Marks	1
Question	One among the following is the correct IUPAC name of the compound $CH_3CH_2-\overset{H}{\overset{\|}{N}}-CHO$
Type	multiple choice
Option	N-Formyl aminoethane
Option	N-Ethyl formyl amine

Option	N-Ethyl methanamide
Option	Ethylamino methanal
Answer	3
Solution	
Positive Marks	4
Negative Marks	1
Question	What is the IUPAC name for the following compound? 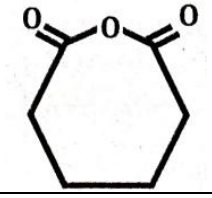
Type	multiple choice
Option	Butanoic Propanoic anhydride
Option	Hexanoic anhydride
Option	Hexane-1,6-dioic anhydride
Option	1, 6-Dioxoheptanoate
Answer	3
Solution	
Positive Marks	4
Negative Marks	1
Question	Provide an appropriate name for the following ketone. 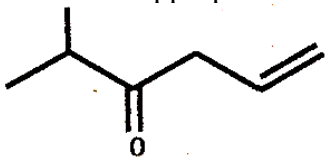
Type	multiple choice
Option	2-methyl 5-hexen-3-one
Option	5-methyl 1-hexen-4-one
Option	1- allyl 3-methyl butanone
Option	1-vinyl 3-methyl-2-butanone
Answer	1
Solution	
Positive Marks	4
Negative Marks	1
Question	What is the IUPAC name for the following compound? 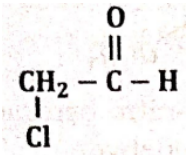
Type	multiple choice
Option	Chloroaldehyde
Option	α-chloroacetaldehyde
Option	β-chloroacetaldehyde
Option	2-chloroethanal
Answer	4
Solution	
Positive Marks	4
Negative Marks	1

Question	The IUPAC name of 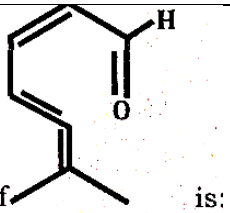 is:
Type	multiple choice
Option	2-methyl 7-oxo-hepta-3,5-diene
Option	6-methyl hepta-2,4-dienal
Option	1-oxo 6-methyl hepta-2,4-diene
Option	2, 6-Dimethyl hepta-2, 5-dienal
Answer	2
Solution	
Positive Marks	4
Negative Marks	1
Question	IUPAC name of the following compounds is: 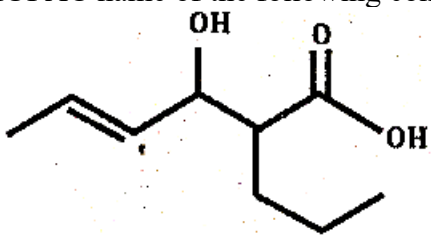
Type	multiple choice
Option	2-butyl-3-hydroxy hex-4-enoic acid
Option	2-propenyl-3-hydroxy hex-4-enoic acid
Option	3-hydroxy-2-propyl hex-4-enoic acid
Option	2-(1-hydroxy but-4-enyl) butanoic acid
Answer	3
Solution	
Positive Marks	4
Negative Marks	1
Question	$HO-\overset{\overset{O}{\|}}{C}-\overset{\overset{O}{\|}}{C}-H$ will be named as (IUPAC):
Type	multiple choice
Option	2-Keto ethanoic acid
Option	2-Oxoethanoic acid
Option	Glyoxalic acid
Option	None is correct
Answer	2
Solution	
Positive Marks	4
Negative Marks	1
Question	The IUPAC name of $CH_3-\underset{\underset{O}{\|}}{C}-O-CH_2-\underset{\underset{O}{\|}}{C}-OH$
Type	multiple choice
Option	1-Acetoxy acetic acid
Option	2-Acetoxy ethanoic acid
Option	2-Ethanoyloxy acetic acid
Option	2-Ethanoyloxyethanoic acid

Answer	4
Solution	
Positive Marks	4
Negative Marks	1
Question	The IUPAC name of compound $HO-C(=O)-CH_3$ $CH_3-C(=C(NH_2)Cl)-C-H$ is:
Type	multiple choice
Option	2-Amino-3-chloro-2-methylpent-2- enoic acid
Option	3-Amino-4-chloro-2-methylpent-2- enoic acid
Option	4-Amino-3-chloro-2-methylpent-2- enoic acid
Option	All of the above
Answer	2
Solution	
Positive Marks	4
Negative Marks	1
Question	The IUPAC name of $CH_3CH_2CH(N(C_2H_5)_2)-CH(Cl)-COOH$ is:
Type	multiple choice
Option	2-Chloro-4-N-ethylpentanoic acid
Option	2-Chloro-3-(N, N-diethyl amino) pentanoic acid
Option	4-N-ethyl 2-chloro pentanoic acid
Option	2-Chloro-2-carboxy-N-ethyl ethane
Answer	2
Solution	
Positive Marks	4
Negative Marks	1