Question	Which functional group can be presented in compound having molecular formula $C_4H_{10}O$?
Type	multiple choice
Option	Aldehyde
Option	Ketone
Option	Acid
Option	Alcohol
Answer	4
Solution	
Positive Marks	4
Negative Marks	1
Question	Which functional group is present in compound having molecular formula C_4H_8O?
Type	multiple choice
Option	Aldehyde
Option	Ketone
Option	Unsaturated alcohol
Option	All of these
Answer	4
Solution	
Positive Marks	4
Negative Marks	1
Question	Which functional group is present in compound having molecular formula C_4H_8?
Type	multiple choice
Option	Alkane
Option	Alkene
Option	Alkyne
Option	Alcohol
Answer	2
Solution	
Positive Marks	4
Negative Marks	1
Question	Which functional group is present in compound having molecular formula $C_2H_4O_2$?
Type	multiple choice
Option	Carboxylic acid
Option	Ester
Option	Amine
Option	Both (a) and (b)
Answer	4
Solution	
Positive Marks	4
Negative Marks	1
Question	How many distinct terminal alkynes with a molecular formula C_6H_{10}?
Type	multiple choice
Option	3
Option	4
Option	5
Option	6
Answer	2
Solution	

Positive Marks	4
Negative Marks	1
Question	How many distinct terminal alkenes with a molecular formula C_6H_{12}?
Type	multiple choice
Option	7
Option	4
Option	5
Option	6
Answer	1
Solution	
Positive Marks	4
Negative Marks	1
Question	How many distinct terminal alkynes exist with a molecular formula of C_5H_8?
Type	multiple choice
Option	1
Option	2
Option	3
Option	4
Answer	2
Solution	
Positive Marks	4
Negative Marks	1
Question	How many distinct internal alkynes exist with a molecular formula of C_6H_{10}?
Type	multiple choice
Option	1
Option	2
Option	3
Option	4
Answer	3
Solution	
Positive Marks	4
Negative Marks	1
Question	How many structural isomers of C_6H_{12} having 3-member ring?
Type	multiple choicex
Option	4
Option	5
Option	6
Option	7
Answer	3
Solution	
Positive Marks	4
Negative Marks	1
Question	How many structural isomer of C_6H_{12} having 4-member ring?
Type	multiple choice
Option	3
Option	4
Option	5
Option	6
Answer	2
Solution	
Positive Marks	4
Negative Marks	1

Question	How many structural isomers of C_8H_{16} that have a six-member ring?
Type	multiple choice
Option	4
Option	5
Option	6
Option	7
Answer	2
Solution	
Positive Marks	4
Negative Marks	1
Question	How many ketones is possible with molecular formula $C_6H_{12}O$?
Type	multiple choice
Option	5
Option	6
Option	7
Option	8
Answer	2
Solution	
Positive Marks	4
Negative Marks	1
Question	How many aldehydes is possible with molecular formula C_4H_8O?
Type	multiple choice
Option	1
Option	2
Option	3
Option	4
Answer	2
Solution	
Positive Marks	4
Negative Marks	1
Question	How many ester in possible with molecular formula $C_5H_{10}O_2$?
Type	multiple choice
Option	3
Option	7
Option	9
Option	10
Answer	3
Solution	
Positive Marks	4
Negative Marks	1
Question	How many carboxylic is possible with molecular formula $C_5H_{10}O_2$?
Type	multiple choice
Option	3
Option	4
Option	5
Option	6
Answer	2
Solution	
Positive Marks	4
Negative Marks	1
Question	Which of the following pairs of structures do not represent isomers?
Type	multiple choice

Option	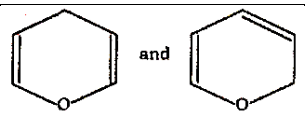
Option	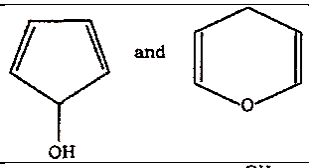
Option	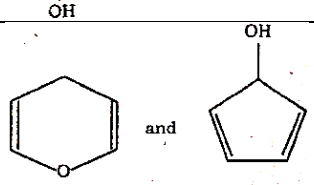
Option	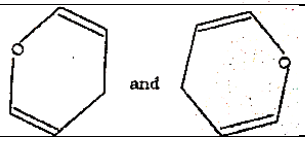
Answer	4
Solution	
Positive Marks	4
Negative Marks	1
Question	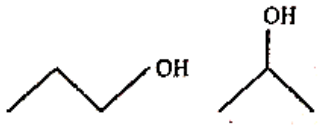 ; (A) and (B) are:
Type	multiple choice
Option	Chain
Option	Functional
Option	Metamers
Option	Positional
Answer	4
Solution	
Positive Marks	4
Negative Marks	1
Question	$CH_3-CH_2-CH_2-C\equiv N$; $CH_3-CH(CN)-CH_3$ (A) (B) Relation between (A) and (B) is:
Type	multiple choice
Option	Chain isomer
Option	Positional isomer
Option	Functional isomer
Option	Metamers
Answer	1
Solution	
Positive Marks	4
Negative Marks	1
Question	The number of ether metamers represented by the molecular formula $C_4H_{10}O$ is 003A
Type	multiple choice
Option	1
Option	2
Option	3
Option	4

Answer	3
Solution	
Positive Marks	4
Negative Marks	1
Question	How many positional isomer possible for, 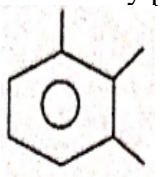
Type	multiple choice
Option	2
Option	3
Option	4
Option	5
Answer	2
Solution	
Positive Marks	4
Negative Marks	1
Question	Number of positional isomer are: 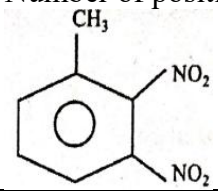
Type	multiple choice
Option	4
Option	5
Option	6
Option	7
Answer	3
Solution	
Positive Marks	4
Negative Marks	1
Question	Structure $CH_3-CH_2-CH=CH_2$ and $CH_3-C(CH_3)=CH_2$ and
Type	multiple choice
Option	Chain isomers
Option	Position isomers
Option	Both chain & position isomers
Option	Not isomer
Answer	1
Solution	
Positive Marks	4
Negative Marks	1
Question	How many minimum carbons required for Chain isomerism and Position isomerism in alkanes?
Type	multiple choice
Option	4, 5
Option	3, 5
Option	4, 6
Option	4, 5
Answer	3

Solution	
Positive Marks	4
Negative Marks	1
Question	How many minimum carbons required for chain iso-merism and Position isomerism in alkenes?
Type	multiple choice
Option	4, 5
Option	3, 4
Option	4, 4
Option	5, 4
Answer	3
Solution	
Positive Marks	4
Negative Marks	1
Question	How many minimum carbons required for chain isomerism and Position isomerism in alkynes?
Type	multiple choice
Option	5, 5
Option	5, 3
Option	4, 6
Option	4, 4
Answer	1
Solution	
Positive Marks	4
Negative Marks	1
Question	$CH_3-CH_2=CH-CH_3$ and 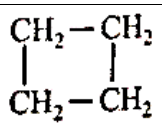
Type	multiple choice
Option	Ring-chain Isomers
Option	Chain Isomers
Option	Functional Isomers
Option	Position Isomers
Answer	1
Solution	
Positive Marks	4
Negative Marks	1
Question	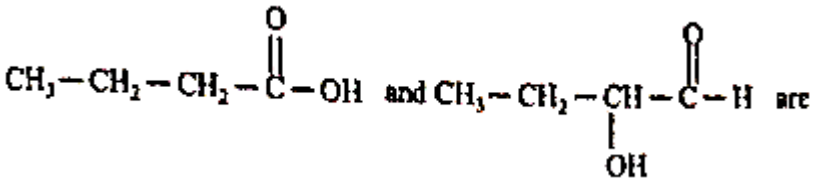
Type	multiple choice
Option	Positional isomers
Option	Functional isomers
Option	Identical
Option	Chain isomers
Answer	2
Solution	
Positive Marks	4
Negative Marks	1
Question	CH_3-S- CH_2 - CH_3 and CH_3 - CH_2-S- CH_3 are-
Type	multiple choice

Option	Ring-chain Isomers
Option	Chain Isomers
Option	Functional Isomers
Option	Identical
Answer	4
Solution	
Positive Marks	4
Negative Marks	1
Question	$CH_3-\overset{O}{\overset{\|\|}{C}}-O-\overset{O}{\overset{\|\|}{C}}-C_6H_5$ and $C_6H_5-\overset{O}{\overset{\|\|}{C}}-O-\overset{O}{\overset{\|\|}{C}}-CH_3$ are -
Type	multiple choice
Option	Metamers
Option	Chain isomers
Option	Identical
Option	Positional Isomers
Answer	3
Solution	
Positive Marks	4
Negative Marks	1
Question	How many geometrical isomers are possible for $CH_3-CH=C=CH-CH=CH-CH_3$
Type	multiple choice
Option	0
Option	1
Option	2
Option	3
Answer	3
Solution	
Positive Marks	4
Negative Marks	1
Question	How many geometrical isomers are possible for CH_3- CH = C = C = C = CH - CH = CH - CH_3
Type	multiple choice
Option	1
Option	2
Option	3
Option	4
Answer	2
Solution	
Positive Marks	4
Negative Marks	1
Question	Which of the following compound will not show geometrical isomers?
Type	multiple choice
Option	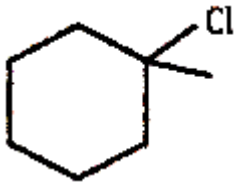

Option	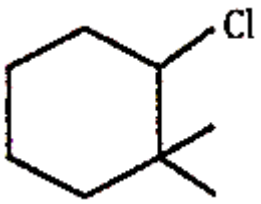
Option	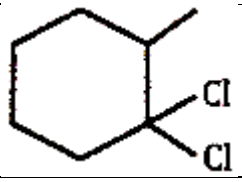
Option	All of these
Answer	4
Solution	
Positive Marks	4
Negative Marks	1
Question	How many geometrical isomers are possible for, CH_3 - CH = CH − CH = CH - Cl?
Type	multiple choice
Option	2
Option	3
Option	4
Option	5
Answer	3
Solution	
Positive Marks	4
Negative Marks	1
Question	How many geometrical are possible for, 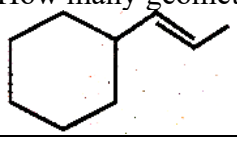
Type	multiple choice
Option	0
Option	1
Option	2
Option	3
Answer	3
Solution	
Positive Marks	4
Negative Marks	1
Question	Which of the following is correct set of physical properties of the geometrical isomers? 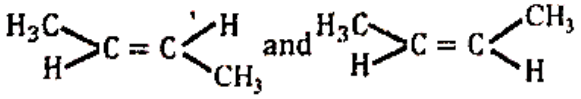 (I) (II)
Type	multiple choice

Option	Dipole	Boiling point	Melting point	Stability
	I>II	I>II	II>I	I>II
Option	II>I	II>I	II>I	II>I
Option	I>II	I>II	I>II	I>II
Option	II>I	II>I	I>II	I>II
Answer	4			
Solution				

Positive Marks	4
Negative Marks	1
Question	Which of the following can not show G.I.:-
Type	multiple choice
Option	CI- CH = CH – Ph
Option	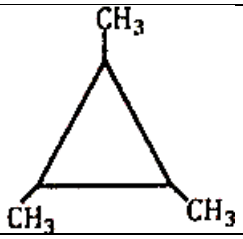
Option	CH_3- CH = C = C - CH_3
Option	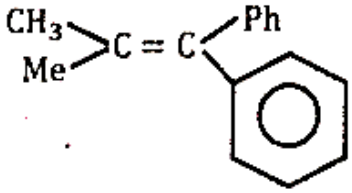
Answer	4
Solution	
Positive Marks	4
Negative Marks	1
Question	E-configuration is shown by
Type	multiple choice
Option	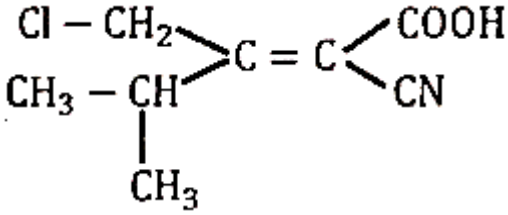
Option	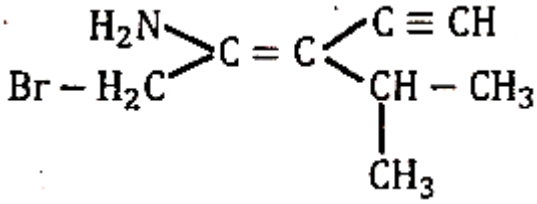
Option	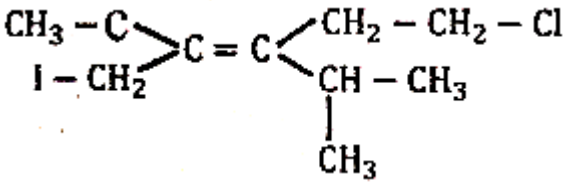
Option	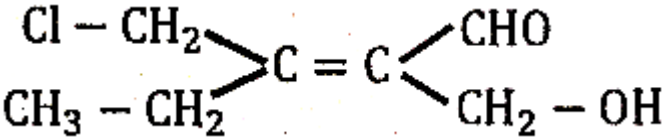
Answer	3
Solution	
Positive Marks	4
Negative Marks	1
Question	Which of the following shows geometrical isomerisim
Type	multiple choice
Option	2, 3-dimethylpent-2-ene
Option	3-phenylprop-2-enoic acid
Option	3,3-dichloro prop-1-ene
Option	3-ethylhex-3-ene

Answer	2
Solution	
Positive Marks	4
Negative Marks	1
Question	(I) $CH_2 = CH - CH_2 - CH = CH_2$ (II) $CH_2 = CH - CH = CH - CH_2$ (III) $CH_3 - CH = CH - CH = CH - CH_3$ The number of possible geometric isomers for the above compounds respectively are:
Type	multiple choice
Option	0, 2, 4
Option	2, 2, 4
Option	0, 3, 3
Option	0, 2, 3
Answer	4
Solution	
Positive Marks	4
Negative Marks	1
Question	Which of the following compound show cis and trans isomerism?
Type	multiple choice
Option	Cl- CH = CH - C1
Option	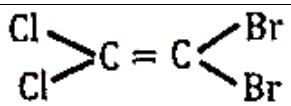
Option	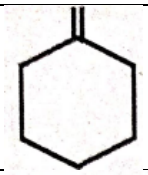
Option	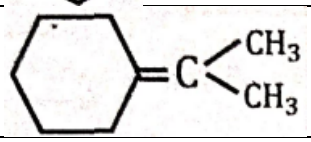
Answer	1
Solution	
Positive Marks	4
Negative Marks	1
Question	Which of the following shows conformational isomerism? 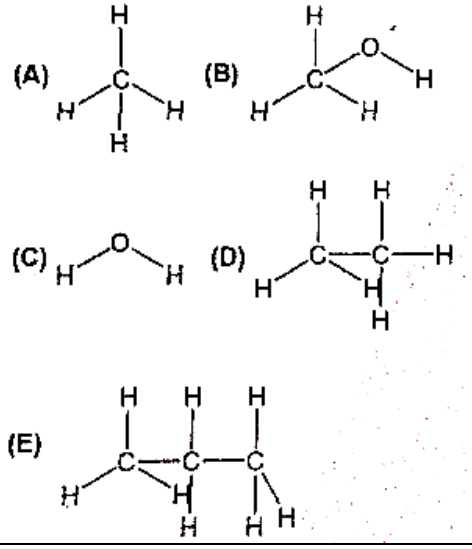
Type	multiple choice

Option	B, D, E
Option	A, B, C, E
Option	B, C, D
Option	C, D, E
Answer	1
Solution	
Positive Marks	4
Negative Marks	1
Question	Most stable conformation of butane is:
Type	multiple choice
Option	Partial eclipsed
Option	Full eclipsed
Option	Staggered
Option	Gauche
Answer	3
Solution	
Positive Marks	4
Negative Marks	1
Question	What is dihedral angle in staggered form of ethane?
Type	multiple choice
Option	30^0
Option	45^0
Option	75^0
Option	60^0
Answer	4
Solution	
Positive Marks	4
Negative Marks	1
Question	In the following the most stable conformation of n-butane is:
Type	multiple choice
Option	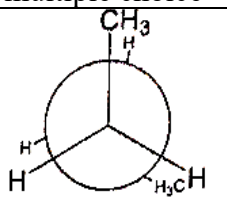
Option	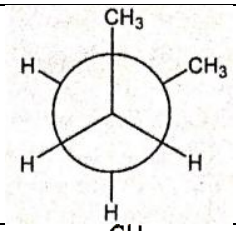
Option	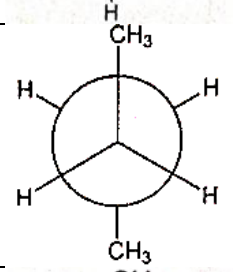
Option	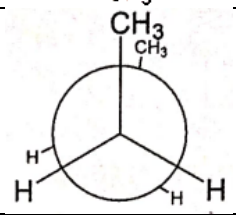

Answer	3
Solution	
Positive Marks	4
Negative Marks	1
Question	Which of the following conformers for ethylene glycol is most stable?
Type	multiple choice
Option	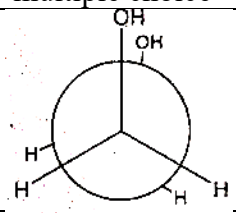
Option	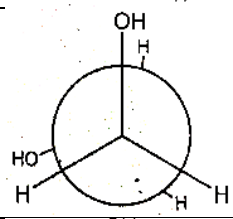
Option	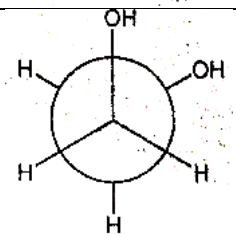
Option	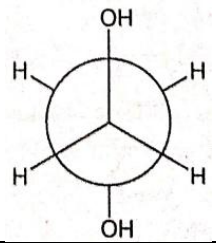
Answer	3
Solution	
Positive Marks	4
Negative Marks	1